Skip to content

- Post category:Uncategorized

Here we are providing **Class 7 Math Important MCQs** Chapter – 2 Fractions and Decimals because its very important for Class 7 students as we all know that every board exam question has MCQs so that students should practice these questions so that students can get good marks in board. Class 7 Math Important MCQs Chapter – 2 Fractions and Decimals is an extremely important and its also a year in which students learn the fundamentals of concepts that help them lay a solid foundation for their higher education. Here we are providing in Class 7 Math Important MCQs Chapter – 2 Fractions and Decimals 70+ Questions so that students practice more and more. If you want class 7 Color full Economics Notes Then **Click Here**

1. The fraction (p+q) /q equals

(a) p

(b) p/q +q

(c) p/q +1

(d) p/q +p

Ans:- (c)

2. The reciprocal of a proper fraction is

(a) 1

(b) an improper fraction

(c) also a proper fraction

(d) a unit fraction

Ans:- (b)

3. Choose the equivalent fraction of 4/5?

(a) 20/25

(b) 16/25

(c) 20/16

(d) 20/35

Ans:- (a)

4. One side of a square 2/a ,its perimeter is

(a) 4/a

(b) 4/a2

(c) 8/a

(d) 8/a2

Ans:- (c)

5. Product of 5/7× 3/5× 2/5 ×5 is equal to a

(a) 3

(b) 11/7

(c) 36/7

(d) 6/7

Ans:- (d)

6. Solve 9/13 + 5/13

(a) 14/13

(b) 13/13 = 1

(c) 4/13

(d) 6/13

Ans:- (a)

7. Write in descending order 4/5, 2/3, 1/2, ¾

(a) 4/5>2/3> 1/2 3/4

(b) 1/2>2/3>4/5>3/4

(c) 3/4>1/2>4/5>2/3

(d) 4/5>3/4>2/3>1/2

Ans:- (d)

8. Reciprocal of 1 3/11

(a) 11/13

(b) 11/10

(c) 11/9

(d) 11/14

Ans:- (d)

9. When the product of two fractions is unity, each is called the

(a) denominator of the other

(b) numerator of the other

(c) additive inverse of the other

(d) reciprocal of the other

Ans:- (d)

10. Solve 7 1/3 = 3 2/3

(a) -85/21

(b) 85/21

(c) 1/3

(d) 1/7

Ans:- (b)

11. Which of the fraction is not equal to the other three

(a) 2/5

(b) 26/65

(c) 14/35

(d) 34/68

Ans:- (d)

12. Simplify 3 ¼ + 1/2÷ 3/4 – 1/2× 3 ½

(a) 2 1/6

(b) 3 1/6

(c) 2 1/5

(d) 3 1/5

Ans:- (a)

13. Which of the following is a proper fraction?

(a) 28/15

(b) 21/23

(c) 16/7

(d) 34/3

Ans:- (b)

14. Choose the greatest one.

(a) 3/7

(b) 5/13

(c) 5/7

(d) 2/13

Ans:- (c)

15. (2/5 +3/5) ÷ (7/5 -4/10)

(a) 1

(b) 0

(c) 3/5

(d) 5/7

Ans:- (a)

16. When simplified the product (2- 1/3) (2- 3/5) (2-5/7) (2- 17/19)

(a) 21/9

(b) 23/3

(c) 19/17

(d) none

Ans:- (d)

17. To multiply a decimal number by 100, shift the decimal point to the right by

(a) one place

(b) 2 places

(c) 3 places

(d) 4 places

Ans:- (b)

18. Multiply and reduce to lowest form and convert into a mixed fraction. 16×2/5?

(a) 2 7/12

(b) 5 6/2

(c) 6 3/5

(d) 6 2/5

Ans:- (d)

19. Compare 0. 5 and 0. 05.

(a) =

(b) >

(c) <

(d) None of these

Ans:- (b)

20. Provide the number in the box ≅ such that 3/5 x ≅ = 24/75.

(a) 7/15

(b) 8/15

(c) 5/3

(d) none of these

Ans:- (b)

21. Find 1/4 of 220.

(a) 45

(b) 55

(c) 65

(d) 75

Ans:- (b)

22. The value of ½ of (3/4÷ 2/3) is

(a) 3/16

(b) 9/16

(c) 3/6

(d) 9/4

Ans:- (b)

23. If 25 ×32 =800 then 2. 5 × . 32 =

(a) 0. 800

(b) 8. 00

(c) 80. 0

(d) . 0800

Ans:- (a)

24. What does this drawing show :

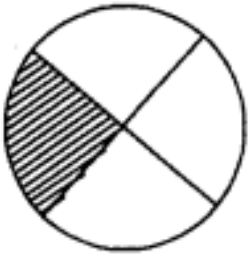

(a) 13

(b) 12

(c) 16

(d) 14

Ans:- (d)

25. The side of an equilateral triangle is 3. 5 cm. Find its perimeter.

(a) 10. 5 cm

(b) 1. 05 cm

(c) 105 cm

(d) None of these

Ans:- (a)

26. Find 36 ÷ 2/3 =?

(a) 81

(b) 72

(c) 54

(d) 63

Ans:- (c)

27. 0. 0302×0. 52 =

(a) 0. 051704

(b) 0. 015407

(c) 0. 15704

(d) none

Ans:- (b)

28. Which amongst the following is the largest?

|-89|, -89, -21, |-21|

(a) -89

(b) -21

(c) |-89|

(d) |-21|

Ans:- (c)

29. Find 54 × 3 5/7 =?

(a) 205 1/5

(b) 209 1/8

(c) 206 5/7

(d) 208 2/7

Ans:- (d)

30. Find the area of rectangle whose length is 5. 7 cm and breadth is 3 cm.

(a) 171 cm^2

(b) 1. 71 ccm^2

(c) 17. 1 cm^2

(d) None of these

Ans:- (c)

31. 0. 04+ 404/1000=

(a) 0. 0404

(b) 0. 0444

(c) 444

(d) 0. 444

Ans:- (d)

32. Express 5 cm in metre.

(a) . 05

(b) . 5

(c) . 005

(d) None of these

Ans:- (a)

33. What are fractions with different denominators called?

(a) Like

(b) Unlike

(c) Proper

(d) Improper

Ans:- (b)

34. Find 16/7 ÷ 4/7?

(a) 6

(b) 4

(c) 5

(d) 2

Ans:- (b)

35. To divide a decimal number by 1000, shift the decimal point to the left by

(a) one place

(b) 2 places

(c) 3 places

(d) 4 places

Ans:- (c)

36. 16. 96÷ 400 =

(a) 420

(b) 0. 0424

(c) 420. 04

(d) 0. 420

Ans:- (b)

37. The value of 1. 8/(0. 4×0. 3) is

(a) 0. 3/0. 2

(b) 0. 4/0. 2

(c) 6/0. 3

(d) none

Ans:- (d)

38. Which is greater?

(a) 0. 001

(b) 0. 05

(c) 0. 7

(d) 0. 9

Ans:- (d)

39. The value of (0. 5) 2×(0. 1) 3 is

(a) 25

(b) 0. 00025

(c) 0. 25

(d) 0. 0025

Ans:- (b)

40. Express 7 paise in rupees.

(a) 7/10

(b) 7/100

(c) 7/1000

(d) None of these

Ans:- (b)

41. 7 paise is equal to

(a) Rs 0. 7

(b) Rs 0. 07

(c) Rs 0. 007

(d) Rs 0. 0007

Ans:- (b)

42. Express as rupees using decimals 9 rupees 50 paise.

(a) 9. 7

(b) 0. 95

(c) 9. 050

(d) 9. 50

Ans:- (d)

43. If 43m =0. 086 then m has the value

(a) 0. 002

(b) 0. 02

(c) 0. 2

(d) 2

Ans:- (a)

44. The result of adding the difference of 3. 003 and 2. 05 to their sum

(a) 6. 006

(b) 60. 06

(c) 600. 6

(d) 0. 6060

Ans:- (a)

45. Find the average of 0. 3, 3, 0. 03 , and 0. 002 is

(a) 0. 833

(b) 0. 803

(c) 83. 3

(d) 833

Ans:- (a)

46. Find 78. 5 ÷ 0. 5?

(a) 153

(b) 159

(c) 158

(d) 157

Ans:- (d)

47. Find the reciprocal of 5/8.

(a) 8/5

(b) 5

(c) 8

(d) none of these

Ans:- (a)

48. How much less is 10 km than 30. 6 km?

(a) 10. 6 km

(b) 20. 6 km

(c) 30. 6 km

(d) 10 km

Ans:- (b)

49. 0. 089m in cm is

(a) 89

(b) 8. 9

(c) 890

(d) 0. 89

Ans:- (b)

50. 0. 088/2. 2 is equal to

(a) 0. 4

(b) none of these

(c) 0. 04

(d) 4

Ans:- (c)

51. Find 58. 3×1000?

(a) 53800

(b) 58300

(c) 5830

(d) 583

Ans:- (b)

52. Indian cricket team won 4 more matches than it lost with New Zealand. If it won 3/5 of its matches, how many matches did India play?

(a) 8

(b) 12

(c) 16

(d) 20

Ans:- (d)

53. Write the place value of 2 in the following decimal numbers : 2. 56

(a) 5

(b) . 06

(c) 2

(d) None of these

Ans:- (c)

54. 0. 8007 × 1000 is equal to

(a) 8. 007

(b) 8007. 0

(c) none of these

(d) 800. 7

Ans:- (d)

55. Write the place value of 2 in the following decimal numbers : 10. 25

(a) 2 tens

(b) 2 tenths

(c) None of these

Ans:- (b)

56. The value of 25. 75/100 is equal to

(a) none of these

(b) 0. 2575

(c) 257. 5

(d) 2. 575

Ans:- (b)

57. Express in kg 3593 g

(a) 3593

(b) 359. 3

(c) 35. 93

(d) 3. 593 kg

Ans:- (d)

58. The value of 2. 2 × 0. 2 × 0. 001 is equal to

(a) 0. 00044

(b) 4. 4

(c) none of these

(d) 4. 2

Ans:- (a)

59. 0. 01 × 0. 01 = _____

(a) 0. 0001

(b) 0. 001

(c) 1

(d) 0. 1

Ans:- (a)

60. If 14 × 4 = 56 then value of 0. 14 × 4 is

(a) none of these

(b) 0. 056

(c) 5. 6

(d) 0. 56

Ans:- (d)

61. 0. 35 × 0. 2 is equal to

(a) 70. 0

(b) 0. 7

(c) 0. 070

(d) 7. 0

Ans:- (c)

62. If 256 /16 = 16 then value of 2. 56 /16 is equal to

(a) 0. 16

(b) none of these

(c) 16. 0

(d) 1. 6

Ans:- (a)

63. The fraction in which the numerator is less than the denominator is called _____ fraction

(a) improper

(b) unlike

(c) proper

(d) like

Ans:- (c)

64. Find 0. 2 x 0. 3

(a) 0. 6

(b) 0. 06

(c) 6

(d) None of these

Ans:- (b)

65. The value of product of two proper fractions is always_____ than each of the fractions

(a) less

(b) none of these

(c) equal

(d) greater

Ans:- (a)

66. The reciprocal of 3/7/ is

(a) 7/5

(b) 7-6

(c) None of these

(d) 7/3

Ans:- (d)

67. 5/7 of a week is ___ days

(a) 7 days

(b) 2 days

(c) 5 days

(d) none of these

Ans:- (c)

68. Which of the following is an improper fraction?

(a) 20/70

(b) 30/40

(c) 50/20

(d) 70/80

Ans:- (c)

69. 7. 235 kg is equal to

(a) 7235 gm

(b) 0. 7235 gm

(c) none of these

(d) 72. 35 gm

Ans:- (a)

70. 7204 m is equal to _____

(a) 72. 04 km

(b) 7. 204 km

(c) 0. 7204 km

(d) none of these

Ans:- (b)

71. 1245/ 100 is equal to

(a) 12. 45

(b) 1. 245

(c) 124. 5

(d) none of these

Ans:- (a)

72. What is 1/2 of 10.

(a) 6

(b) 4

(c) 3

(d) 5

Ans:- (d)

73. Which of the following is the smallest: 14/25 , 57/100 , 49/ 86 , 3/5.

(a) 14/25

(b) 57/100

(c) 49/ 86

(d) 3/5

Ans:- (a)

74. Which parts contain the fractions in ascending order?

(a) 16/19 ,19 /21, 11/14

(b) 11/14 ,19/ 21 ,16/19

(c) Both

(d) None of these

Ans:- (b)

75. $0.64 \times 0.64 + 0.64 \times 0.72 + 0.36 \times 0.36 = \ldots$

(a) 1

(b) 0. 8962

(c) 0. 9682

(d) 0. 5392

Ans:- (a)

76. Find the area of rectangle whose length is 6. 7 cm and breadth is 2 cm.

(a) 13 cm^2

(b) 13. 4 cm^2

(c) 13. 8 cm^2

(d) 14 cm^2

Ans:- (b)

77. Which of the following is a true statement?

(a) $1.14 < 1.2$

(b) $1.14 < 1.040$

(c) $1.143 > 1.15$

(d) $1.14 > 1.2$

Ans:- (a)

78. What should be subtracted from 0. 1 to get 0. 03?

(a) . 007

(b) None of these

(c) 07

(d) 0. 7

Ans:- (c)

Please Share This Share this content

- Opens in a new window



- Opens in a new window

- Opens in a new window

- Opens in a new window

- Opens in a new window

- Opens in a new window

- Opens in a new window

- Opens in a new window

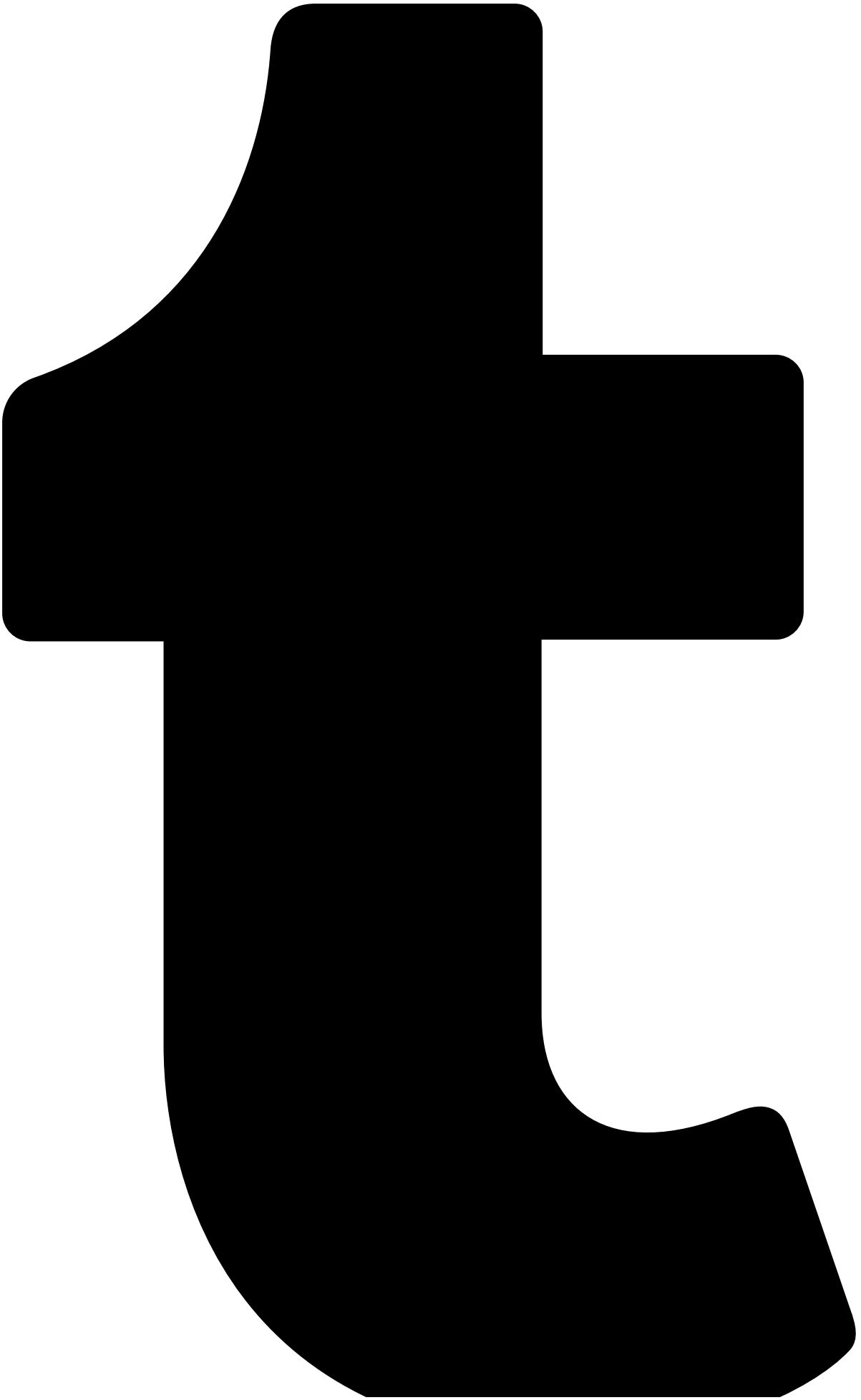

- Opens in a new window



- Opens in a new window

You Might Also Like

CTET 2022-23 Social Studies MCQs In Hindi PAPER – II

December 13, 2022

Class 12 Accountancy MCQs Chapter – 04 Reconstitution Of A Partnership Firm – Retirement/Death Of A Partner

September 24, 2023

CBSE Class 11 Physics Solutions

May 4, 2023