- Post category:Uncategorized

Here we are providing **Class 7 Math Important MCQs** Chapter – 05 Lines and Angles because its very important for Class 7 students as we all know that every board exam question has MCQs so that students should practice these questions so that students can get good marks in board. Class 7 Math Important MCQs Chapter – 05 Lines and Angles is an extremely important and its also a year in which students learn the fundamentals of concepts that help them lay a solid foundation for their higher education. Here we are providing in Class 7 Math Important MCQs Chapter – 05 Lines and Angles 70+ Questions so that students practice more and more. If you want class 7 Color full Economics Notes Then **Click Here**

Download PDF

1. Which of the following statements is true?

(a) Two adjacent angles can be complementary.

(b) Two adjacent angles cannot be supplementary

(c) An acute angle cannot be adjacent to an obtuse angles.

(d) Two right angles cannot be adjacent angles

Ans-(a)

2. A line that intersects two or more lines at distinct points is called

(a) parallel

(b) transversal

(c) intersecting

(d) None of these

Ans-(b)

3. The angles in a linear pair are

(a) complementary

(b) supplementary

(c) not adjacent angles

(d) vertically opposite angles

Ans-(b)

4. When the sum of the measures of two angles is 90°, the angles are called

(a) supplementary angles

(b) complementary angles

(c) adjacent angles

(d) vertically opposite angles

Ans-(b)

5. Which of the following statements is true?

(a) Two acute angles can form a linear pair.

(b) Two obtuse angles can form a linear pair

(c) Two right angles can form a linear pair

(d) One obtuse angle and one acute angle cannot form a linear pair

Ans-(c)

6. What happens to the measurement of an angle after the extension of its arms?

(a) Doubles

(b) Triples

(c) Remains the same

(d) Cannot be said

Ans-(c)

7. The sum of the measures of two complementary angles is

(a) 180°

(b) 60°

(c) 45°

(d) 90°

Ans-(d)

8. If a transversal intersects two parallel lines then the interior angles on the same side of the transversal are

(a) vertically opposite angles

(b) supplementary angles

(c) complementary angles

(d) alternate angles

Ans-(b)

9. Which of the following statements is false?

(a) Two vertically opposite angles can be acute

(b) Two vertically opposite angles can be obtuse

(c) Two vertically opposite angles can be right angles

(d) Two vertically opposite angles may be unequal

Ans-(d)

10. (180°, 5°) pair of angle is given :

(a) complementary

(b) supplementary

(c) None of these

Ans-(c)

11. Find the angle, which is equal to its supplement.

(a) 60°

(b) 90°

(c) 120°

(d) 30°

Ans-(b)

12. The measure of the complement of the angle 30° is

(a) 30°

(b) 16°

(c) 60°

(d) 160°

Ans-(c)

13. What is the supplement of 105°

(a) 65°

(b) 75°

(c) 85°

(d) 95°

Ans-(b)

14. See the figure of Q. 32 above. Which pair of angles are alternate interior angles?

(a) ∠1, ∠5

(b) ∠2, ∠6

(c) ∠3, ∠7

(d) ∠3, ∠5

Ans-(d)

15. If two lines intersect at a point, then the vertically opposite angles are always _____ .

(a) supplementary

(b) equal

(c) unequal

(d) none of these

Ans-(b)

16. Identify which of the following pairs of angles are supplementary.

(a) 45°, 45°

(b) 63°, 27°

(c) 112°, 68°

(d) 80°, 10°

Ans-(c)

17. Which of the following statements is true?

(a) Two acute angles can be complementary to each other

(b) Two obtuse angles can be complementary to each other

(c) Two right angles can be complementary to each other

(d) One obtuse angle and one acute angle can be complementary to each other

Ans-(a)

18. What do we call an angle whose measurement is exactly equal to 0°?

(a) An obtuse angle

(b) A straight angle

(c) A zero angle

(d) A right angle

Ans-(c)

19. Find the measure of the angle which is half of its supplementary angle?

(a) 60°

(b) 120°

(c) 90°

(d) 45°

Ans-(a)

20. What do we call an angle whose measurement is exactly equal to 0o?

(a) An obtuse angle

(b) A straight angle

(c) A zero angle

(d) A right angle

Ans-(c)

21. In the following figure, if ∠1 + ∠2 = 100°, then the measure of ∠4 is equal to

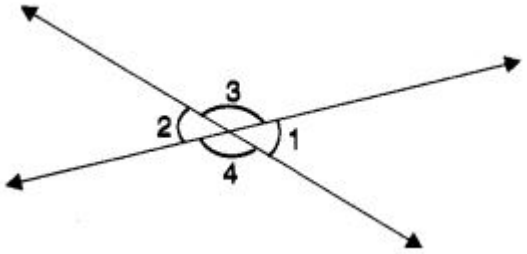

(a) 50°

(b) 100°

(c) 80°

(d) 130°

Ans-(d)

22. The measure of the complement of the angle 46° is

(a) 90°

(b) 44°

(c) 16°

(d) 136°

Ans-(b)

23. Identify which of the following pairs of angles are complementary.

(a) 65°, 115°

(b) 130°, 50°

(c) 63°, 27°

(d) 112°, 68°

Ans-(c)

24. What is the measure of the complement of the angle 80°?

(a) 10°

(b) 100°

(c) 36°

(d) 20°

Ans-(a)

25. In the following figure, $\angle 1 + \angle 2 + \angle 3 = 230°$, then the measure of $\angle 4$ is equal to

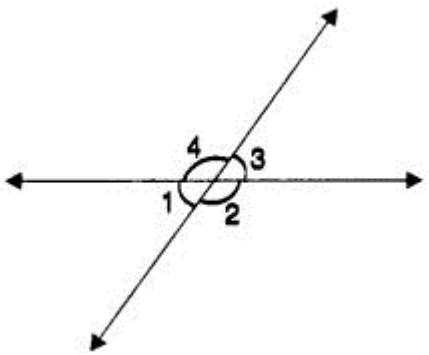

(a) 130°

(b) 80°

(c) 65°

(d) 90°

Ans-(a)

26. If two lines intersect at a point, then the vertically opposite angles are always _____

(a) supplementary

(b) equal

(c) unequal

(d) none of these

Ans-(b)

27. The measure of the angle which is equal to its complement is

(a) 30°

(b) 60°

(c) 46°

(d) 90°

Ans-(c)

28. In the given figure value of x is :

(a) 55°

(b) 45°

(c) 65°

(d) None of these

Ans-(a)

29. What are the lines which lie on the same plane and do not intersect at any point called?

(a) Perpendicular lines

(b) Intersecting lines

(c) Parallel lines

(d) Collinear lines

Ans-(c)

30. Which of the following pairs of angles is not a pair of complementary angles?

(a) 60°, 30°

(b) 66°, 34°

(c) 0°, 90°

(d) 160°, 30°

Ans-(d)

31. If two angles are supplementary then the sum of their measures is _____.

(a) 45°

(b) 180°

(c) 90°

(d) 360°

Ans-(b)

32. What is the measure of the complement of the angle 90°?

(a) 90°

(b) 0°

(c) 180°

(d) 46°

Ans-(b)

33. Measure of the supplement of 100° :

(a) 70°

(b) 75°

(c) 80°

(d) None of these

Ans-(c)

34. The measure of the complement of the angle 40° is

(a) 15°

(b) 40°

(c) 50°

(d) 140°

Ans-(c)

35. Find the angle, which is equal to its complement.

(a) 45°

(b) 25°

(c) 35°

(d) 30°

Ans-(a)

36. When the sum of the measures of two angles is 180°, the angles are called

(a) adjacent angles

(b) complementary angles

(c) vertically opposite angles

(d) supplementary angles

Ans-(d)

37. If two adjacent angles are supplementary, then they form _____ .

(a) a linear pair of angles

(b) vertically opposite angles

(c) Corresponding angles

(d) a ray

Ans-(a)

38. The sum of the measures of two supplementary angles is

(a) 90°

(b) 180°

(c) 360°

(d) none of these

Ans-(b)

39. What is the measure of the complement of 65°?

(a) 25°

(b) 55°

(c) 65°

(d) 45°

Ans-(a)

40. The measure of the supplement of the angle 120° is

(a) 30°

(b)45°

(c) 60°

(d) 90°

Ans-(c)

41. What is the measure of the complement of 41°?

(a) 135°

(b) 15°

(c) 49°

(d) None of these

Ans-(c)

42. Complementary to 0° angle is :

(a) 90°

(b) 95°

(c) 75°

(d) None of these

Ans-(a)

43. Which of the following statements is true?

(a) Two acute angles can be supplementary.

(b) Two right angles can be supplementary.

(c) Two obtuse angles can be supplementary.

(d) One obtuse angle and one acute angle cannot be supplementary

Ans-(b)

44. Which instrument is used to measure or construct angles?

(a) Compasses

(b) Scale

(c) Protractor

(d) Set squares

Ans-(c)

45. Identify which of the following pairs of angles are complementary.

(a) 65°, 115°

(b) 130°, 50°

(c) 63°, 27°

(d) 112°, 68°

Ans-(c)

46. The measure of the supplement of the angle 90° is

(a) 45°

(b) 60°

(c) 30°

(d) 90°

Ans-(d)

47. The sum of all angles around a point is

(a) 0deg

(b) 180deg

(c) 360deg

(d) 90deg

Ans-(c)

48. The measure of the angle which is equal to its supplement is

(a) 30°

(b) 45°

(c) 90°

(d) 60°

Ans-(c)

49. How many rays can be drawn from a given point?

(a) 2

(b) 5

(c) 8

(d) Infinitely many

Ans-(d)

50. Which of the following pairs of angles is not a pair of supplementary angles?

(a) 90°, 90°

(b) 32°, 58°

(c) 0°, 180°

(d) 76°, 104°

Ans-(b)

51. What do we call an angle which exactly measures 90°?

(a) An obtuse angle

(b) An acute angle

(c) A right angle

(d) A reflex angle

Ans-(c)

52. What is the measure of the supplement of the angle 0°?

(a) 45°

(b) 90°

(c) 120°

(d) 180°

Ans-(d)

53. Identify which of the following pairs of angles are supplementary.

(a) 45°, 45°

(b) 63°, 27°

(c) 112°, 68°

(d) 80°, 10°

Ans-(c)

54. The measure of the supplement of the angle 179° is

(a) 1°

(b) 2°

(c) 3°

(d) 4°

Ans-(a)

Please Share This Share this content

- Opens in a new window



- Opens in a new window

- Opens in a new window

- Opens in a new window

- Opens in a new window

- Opens in a new window

- Opens in a new window

- Opens in a new window

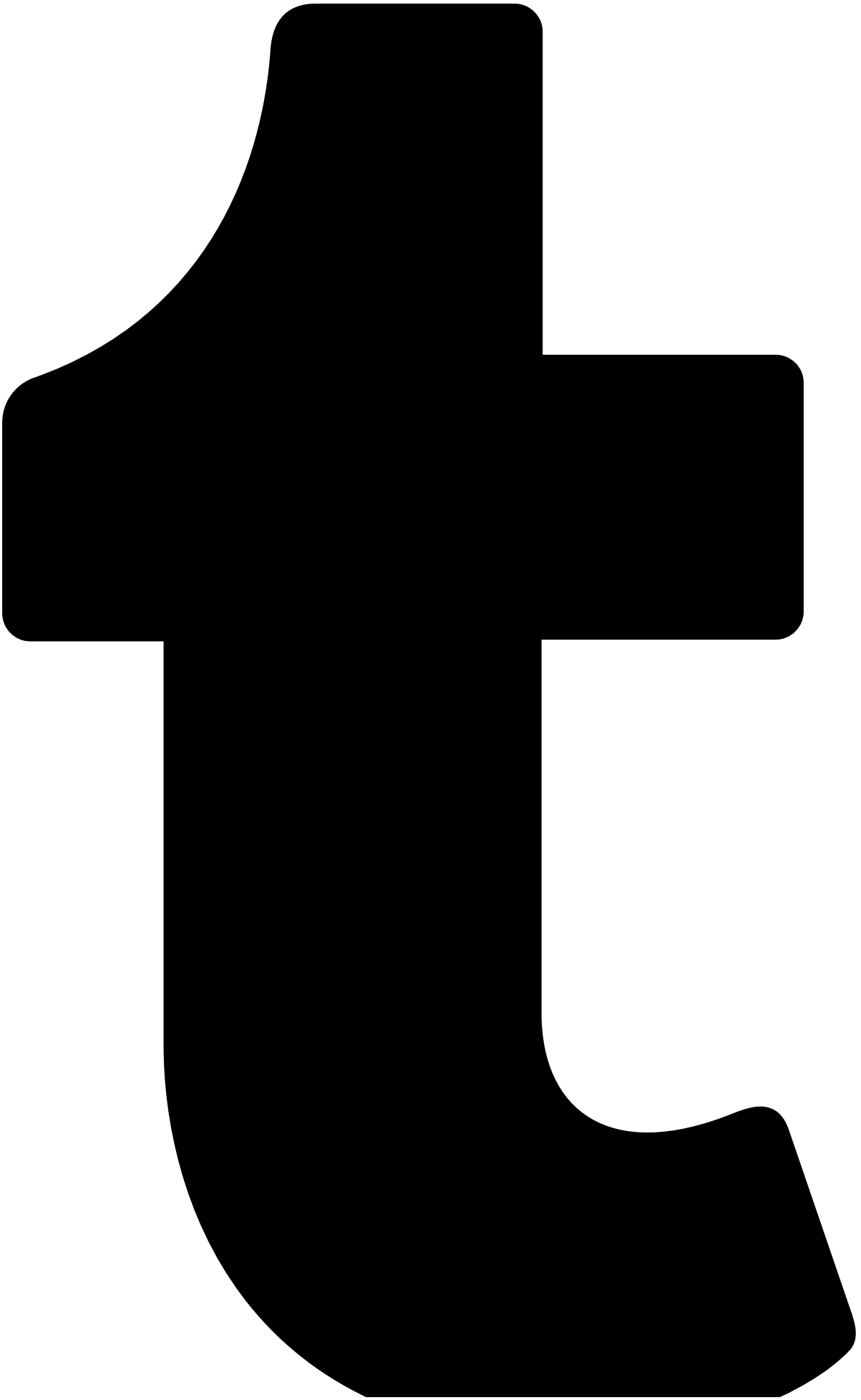

- Opens in a new window



- Opens in a new window

You Might Also Like

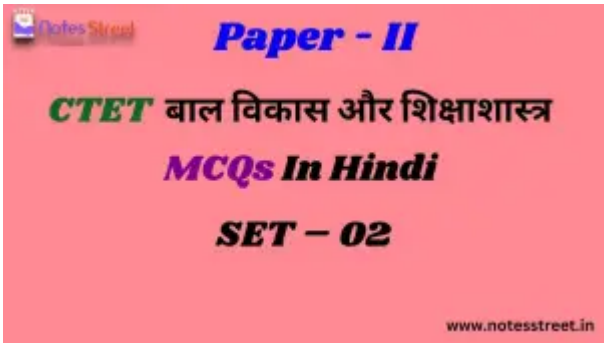

CTET बाल विकास और शिक्षाशास्त्र MCQs in Hindi SET – 02

December 10, 2022

Class 8 Math Notes Chapter – 01 परिमेय संख्याएँ

August 13, 2023

CBSE Class 10 Math Subjective

April 24, 2023