Skip to content

- Post category:Uncategorized

Here we are providing **Class 7 Math Important MCQs** Chapter – 14 Symmetry because its very important for Class 7 students as we all know that every board exam question has MCQs so that students should practice these questions so that students can get good marks in board. Class 7 Math Important MCQs Chapter – 14 Symmetry is an extremely important and its also a year in which students learn the fundamentals of concepts that help them lay a solid foundation for their higher education. Here we are providing in Class 7 Math Important MCQs Chapter – 14 Symmetry 70+ Questions so that students practice more and more. If you want class 7 Color full Economics Notes Then **Click Here**

Download PDF

1. How many lines of symmetry are there in an equilateral triangle?

(a) 1

(b) 2

(c) 3

(d) 4

Ans-(c)

2. Which of the following letters have reflection line of symmetry about vertical mirror?

(a) C

(b) V

(c) B

(d) Q

Ans-(b)

3. How many lines of symmetry are there in a square?

(a) 1

(b) 2

(c) 3

(d) 4

Ans-(d)

4. How many lines of symmetries are there in regular pentagon?

(a) 2

(b) 3

(c) 5

(d) 4

Ans-(c)

5. How many lines of symmetry are there in a rectangle?

(a) 1

(b) 2

(c) 3

(d) 4

Ans-(b)

6. Number of lines of symmetry a triangle does not have:

(a) 3

(b) 1

(c) 0

(d) 2

Ans-(d)

7. How many lines of symmetry are there in a regular pentagon?

(a) 1

(b) 2

(c) 3

(d) 5

Ans-(d)

8. State the number of lines of symmetry a circle.

(a) Infinite

(b) 0

(c) 4

(d) None of these

Ans-(a)

9. A In A XYZ, XY = XZ and XM⊥YZand ZP⊥XY. About which of the following is the triangle symmetrical?

(a) XM

(b) YN

(c) ZP

(d) XZ

Ans-(a)

10. How many lines of symmetry are there in a regular hexagon?

(a) 2

(b) 4

(c) 6

(d) 3

Ans-(c)

11. How many lines of symmetries are there in rectangle?

(a) 2

(b) 1

(c) 0

(d) None of these

Ans-(a)

12. How many lines of symmetry are there in the following figure?

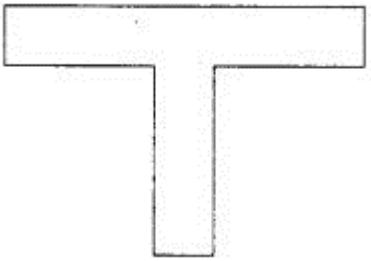

(a) 1

(b) 2

(c) 3

(d) 4

Ans-(a)

13. How many lines of symmetries are there in an equilateral triangle?

(a) 2

(b) 3

(c) 0

(d) 1

Ans-(b)

14. How many lines of symmetry are there in the following figure?



(a) 1

(b) 2

(c) 3

(d) 4

Ans-(a)

15. Letter ‘C’ of the English alphabet have reflectional symmetry (i.e., symmetry related to mirror reflection) about.

(a) a horizontal mirror

(b) a vertical mirror

(c) both

(d) None of these

Ans-(a)

16. How many lines of symmetry are there in the following figure?

(a) 1

(b) 2

(c) 3

(d) 4

Ans-(a)

17. Letter ‘H’ of the English alphabet have reflectional symmetry (i.e., symmetry related to mirror reflection) about.

(a) a vertical mirror

(b) Both horizontal nand veritcal

(c) a horizontal mirror

(d) Neither horizontal nor veritcal

Ans-(b)

18. The order of rotational symmetry of a circle is

(a) 1

(b) 4

(c) 2

(d) infinite

Ans-(d)

19. State the number of lines of symmetry for a parallelogram.

(a) 0

(b) 1

(c) 2

(d) None of these

Ans-(a)

20. Which of the following triangles has no line of symmetry?

(a) An equilateral triangle

(b) An isosceles triangle

(c) A scalene triangle

(d) All of the above

Ans-(c)

21. The order of rotational symmetry of the following figure is:

(a) 1

(b) 2

(c) 3

(d) 4

Ans-(b)

22. Which of the following alphabets has line symmetry?

(a) P

(b) Q

(c) Z

(d) A

Ans-(d)

23. Which of the following has only one line of symmetry?

(a) A rectangle

(b) A square

(c) A semi circle

(d) An equilateral triangle

Ans-(c)

24. How many lines of symmetry are there in the following figure?

(a) 4

(b) 3

(c) 2

(d) 1

Ans-(d)

25. Which of the followings has both horizontal as well as vertical line of symmetry?

(a) H

(b) S

(c) V

(d) A

Ans-(a)

26. Which of the following letters of English alphabet has reflectional symmetry about both horizontal and vertical mirrors?

(a) O

(b) Y

(c) T

(d) L

Ans-(a)

27. The angle of rotation of an isosceles triangle is

(a) 120°

(b) 270°

(c) 180°

(d) 360°

Ans-(c)

28. Which of the following alphabets has many lines of symmetry?

(a) I

(b) O

(c) P

(d) F

Ans-(b)

29. How many lines of symmetry are there in a scalene triangle?

(a) 1

(b) 0

(c) 2

(d) 4

Ans-(b)

30. Which of these quadrilaterals have both line and rotational symmetries of order more than 3?

(a) A triangle

(b) A square

(c) A kite

(d) A rectangle

Ans-(b)

31. How many lines of symmetry are there in a parallelogram?

(a) 0

(b) 1

(c) 2

(d) None of these

Ans-(d)

32. Letter 'D' of the English alphabet have reflectional symmetry (i.e., symmetry related to mirror reflection) about.

(a) a vertical mirror

(b) a horizontal mirror

(c) both

(d) None of these

Ans-(a)

33. The order of the rotational symmetry of the following figure about the point marked x is

(a) 1

(b) 2

(c) 3

(d) 4

Ans-(c)

34. How many lines of symmetries are there in a square?

(a) 2

(b) 3

(c) 4

(d) 1

Ans-(c)

35. Letter 'C' of the English alphabet have reflectional symmetry (i.e., symmetry related to mirror reflection) about.

(a) a horizontal mirror

(b) a vertical mirror

(c) both

(d) None of these

Ans-(a)

36. Which of these letters has only rotational symmetry?

(a) S

(b) E

(c) B

(d) P

Ans-(a)

37. State the number of lines of symmetry for a quadrilateral.

(a) 1

(b) 0

(c) 2

(d) None of these

Ans-(b)

38. State the number of lines of symmetry for a scalene triangle.

(a) 1

(b) 2

(c) 0

(d) None of these

Ans-(c)

39. Letter ‘G’ of the English alphabet have reflectional symmetry (i.e., symmetry related to mirror reflection) about.

(a) Neither horizontal nor veritcal

(b) a horizontal mirror

(c) a vertical mirror

(d) both

Ans-(a)

40. State the number of lines of symmetry for an equilateral triangle.

(a) 3

(b) 0

(c) 1

(d) None of these

Ans-(a)

41. What is the order of rotational symmetry of the English alphabet Z?

(a) 0

(b) 1

(c) 2

(d) 3

Ans-(c)

Please Share This Share this content

- Opens in a new window



- Opens in a new window

- Opens in a new window

- Opens in a new window

- Opens in a new window

- Opens in a new window

- Opens in a new window

- Opens in a new window

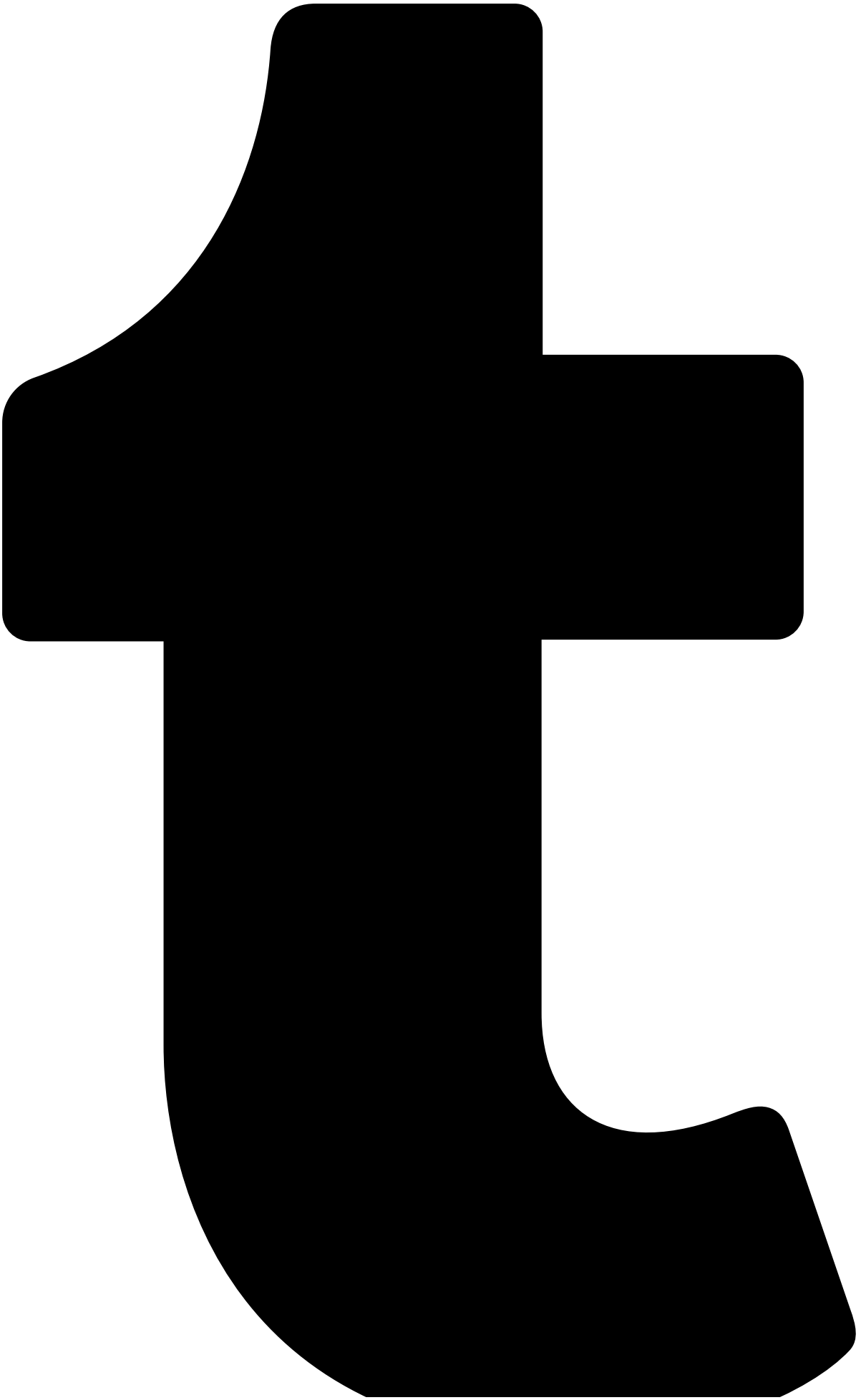

- Opens in a new window



- Opens in a new window

You Might Also Like

CBSE Class 9 Science

April 24, 2023

NCERT Solution for Class 11 Business Studies Chapter 6 Social Responsibilities of Business and Business Ethics

August 5, 2023

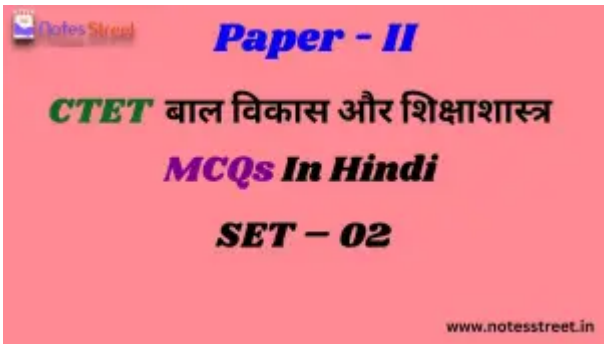

CTET बाल विकास और शिक्षाशास्त्र MCQs in Hindi SET – 02

December 10, 2022