Skip to content

- Post category:Uncategorized

Here we are providing **Class 7 Math Important MCQs** Chapter – 15 Visualising Solid Shapes because its very important for Class 7 students as we all know that every board exam question has MCQs so that students should practice these questions so that students can get good marks in board. Class 7 Math Important MCQs Chapter – 15 Visualising Solid Shapes is an extremely important and its also a year in which students learn the fundamentals of concepts that help them lay a solid foundation for their higher education. Here we are providing in Class 7 Math Important MCQs Chapter – 15 Visualising Solid Shapes 70+ Questions so that students practice more and more. If you want class 7 Color full Economics Notes Then **Click Here**

Download PDF

1. By folding the adjoining net, we get

(a) A cube

(b) A cylinder

(c) A pyramid

(d) A cone

Ans-(c)

2. What cross-section do you get when you give a horizontal cut to a round apple?

(a) Circle

(b) Square

(c) Rectangle

(d) Triangle

Ans-(a)

3. The vertical cut of a brick will show the cross section is

(a) circle

(b) pentagon

(c) rectangle

(d) hexagon

Ans-(c)

4. What cross-section do you get when you give a vertical cut to an ice-cream cone?

(a) Triangle

(b) Circle

(c) Rectangle

(d) Square

Ans-(a)

5. Which of the solids has the maximum number of vertices

(a) cuboid

(b) pyramid

(c) cylinder

(d) cone

Ans-(a)

6. What cross-section do you get when you give a horizontal cut to an ice-cream cone?

(a) Triangle

(b) Circle

(c) Rectangle

(d) Square

Ans-(b)

7. Which of the following is three dimensional?

(a) A plane

(b) A curve

(c) Cuboid

(d) A prism

Ans-(c)

8. The number of faces of a triangular prism is _____.

(a) 5

(b) 6

(c) 4

(d) None of these

Ans-(c)

9. The curved face of a cylinder can be opened up as a

(a) rectangle

(b) none of these

(c) triangle

(d) circle

Ans-(a)

10. The number of faces of a cube is _____.

(a) 4

(b) 6

(c) 8

(d) None of these

Ans-(b)

11. Number of edges in a square pyramid is

(a) 6

(b) 8

(c) 10

(d) 12

Ans-(b)

12. The angle between two adjacent edges of a cube and cuboid is

(a) 90^0

(b) 45^0

(c) 120^0

(d) 60^0

Ans-(a)

13. A cuboid has _____ rectangular faces.

(a) 8

(b) 2

(c) 6

(d) 4

Ans-(c)

14. Adjoining figure is

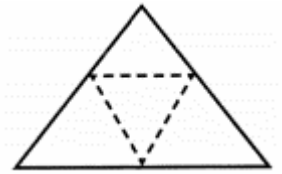

(a) Cone

(b) Square pyramid

(c) Prism

(d) Triangular pyramid

Ans-(d)

15. The shape of a brick

(a) cuboid

(b) circle

(c) Rectangle

(d) cube

Ans-(a)

16. Which of the following solids has only one face?

(a) Cone

(b) Cylinder

(c) Sphere

(d) Pyramid

Ans-(c)

17. The number of faces of a cylinder is _____.

(a) 2

(b) 1

(c) 3

(d) None of these

Ans-(a)

18. The number of vertices of the solid shape is

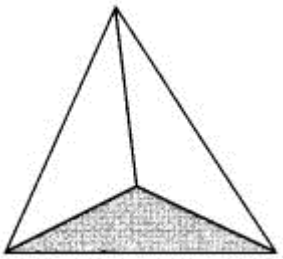

(a) 1

(b) 2

(c) 3

(d) 4

Ans-(d)

19. Two cubes of edge length 2 cm are placed side by side. The length of the resulting cuboid is

(a) 2 cm

(b) 4 cm

(c) 1 cm

(d) none of these

Ans-(b)

20. The shape of a drum

(a) cuboid

(b) cube

(c) cylinder

(d) cone

Ans-(a)

21. The number of faces of a square pyramid is _____.

(a) 4

(b) 7

(c) 5

(d) None of these

Ans-(c)

22. Which is/are two dimensional figure (i) square (ii) circle (iii) cube (iv) cuboid

(a) 1,2,3 only

(b) 2,3,4 only

(c) All of these

(d) 1,2 only

Ans-(a)

23. Identify the correct statement from the following.

(a) A triangle has 3 sides and 4 vertices.

(b) A cylinder has 3 faces.

(c) All sides of the rectangle are equal.

(d) A cuboid has 4 flat faces and 12 straight edges.

Ans-(b)

24. Which one of the following is not a cuboid

(a) playing die

(b) geometry box

(c) briefcase

(d) a box of corn flakes

Ans-(a)

25. The number of faces of a rectangular prism is _____.

(a) 4

(b) 6

(c) 3

(d) None of these

Ans-(b)

26. The name of the solid shape is

(a) cone

(b) cylinder

(c) sphere

(d) cube

Ans-(b)

27. The number of edges of a square pyramid is _____.

(a) 4

(b) 6

(c) 8

(d) None of these

Ans-(c)

28. The name of the solid shape is

(a) cuboid

(b) cube

(c) pyramid

(d) cone

Ans-(a)

29. The number of edges of a rectangular pyramid is _____.

(a) 21

(b) 8

(c) 7

(d) None of these

Ans-(b)

30. The name of the solid shape is

(a) cylinder

(b) cone

(c) sphere

(d) cube

Ans-(c)

31. The number of edges of a triangular pyramid is _____.

(a) 8

(b) 5

(c) 6

(d) None of these

Ans-(c)

32. The name of the solid shape is

(a) cube

(b) cylinder

(c) cone

(d) sphere

Ans-(a)

33. The number of faces of a triangular pyramid or tetrahedron is _____.

(a) 4

(b) 6

(c) 5

(d) 1024

Ans-(a)

34. The name of the solid shape is

(a) cylinder

(b) cone

(c) cuboid

(d) sphere

Ans-(b)

36. The number of triangular faces of a triangular prism is _____.

(a) 2

(b) 1

(c) 4

(d) None of these

Ans-(a)

37. The name of the solid shape is

(a) cylinder

(b) cone

(c) sphere

(d) pyramid

Ans-(d)

38. Cuboid is an example of

(a) Both

(b) 2-D shape

(c) 3-D shape

(d) None of these

Ans-(c)

39. The number of edges of a cube is

(a) 8

(b) 12

(c) 6

(d) 3

Ans-(b)

40. The number of vertices of a cube is _____.

(a) 12

(b) 8

(c) 6

(d) None of these

Ans-(b)

41. What cross-section do you get when you give a horizontal cut to a die?

(a) Square

(b) Rectangle

(c) Triangle

(d) Circle

Ans-(a)

42. Which of the following is the number of vertices of sphere?

(a) 0

(b) 1

(c) 2

(d) 4

Ans-(a)

43. What cross-section do you get when you give a vertical cut to a brick?

(a) Square

(b) Rectangle

(c) Triangle

(d) Circle

Ans-(a)

44. A die is cut horizontally. What is the cross-section obtained?

(a) A triangle

(b) A rectangle

(c) A square

(d) A cube

Ans-(c)

45. What cross-section do you get when you give a horizontal cut to a brick?

(a) Triangle

(b) Circle

(c) Square

(d) Rectangle

Ans-(d)

46. Rakesh has 10 one rupee coins of similar kind. He puts them exactly one on the other. What shape will he get finally?

(a) Circle

(b) Cylinder

(c) Cube

(d) Cone

Ans-(b)

47. What cross-section do you get when you give a vertical cut to a round apple?

(a) Circle

(b) Triangle

(c) Square

(d) Rectangle

Ans-(a)

Please Share This Share this content

- Opens in a new window



- Opens in a new window

- Opens in a new window

- Opens in a new window

- Opens in a new window

- Opens in a new window

- Opens in a new window

- Opens in a new window

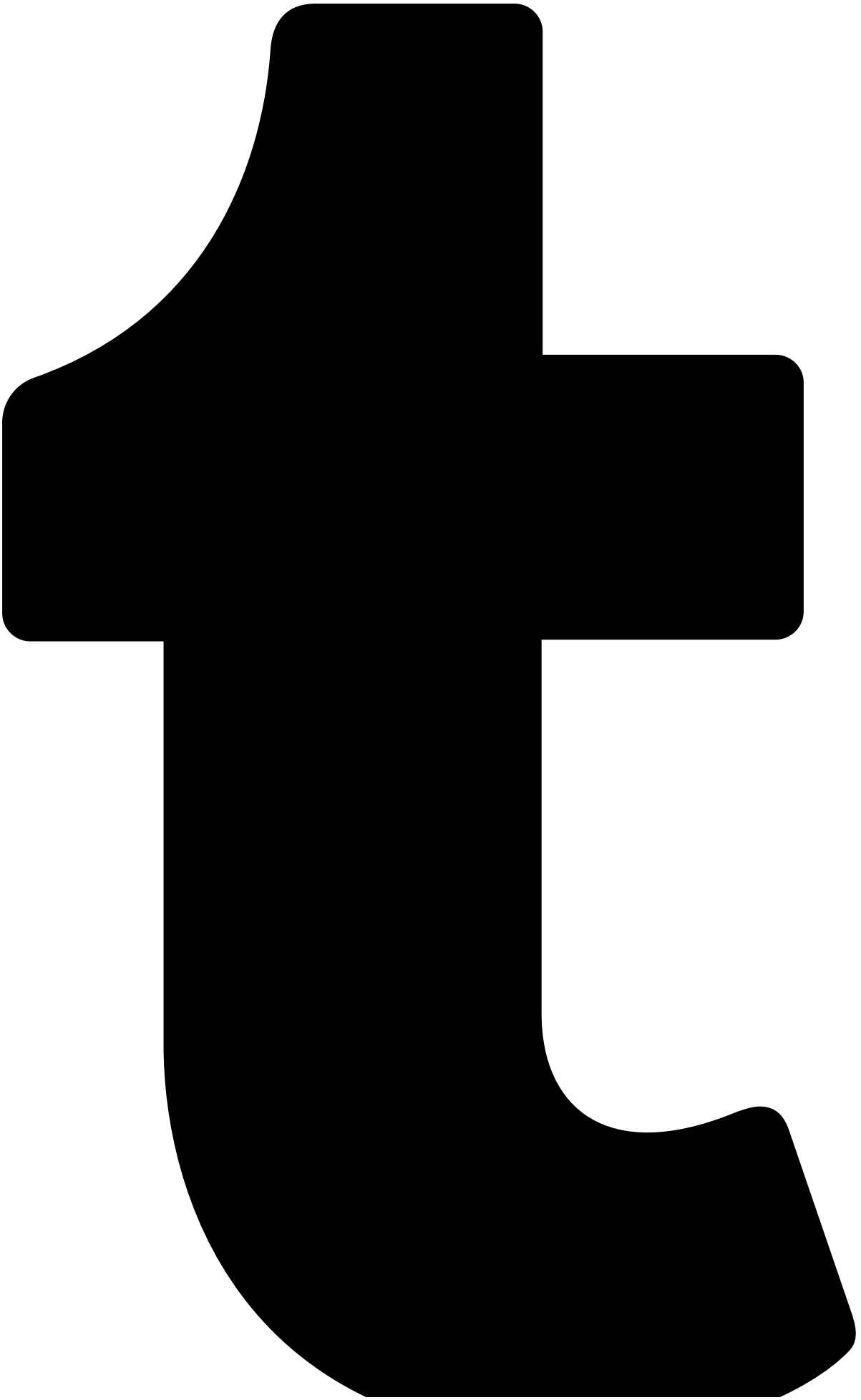

- Opens in a new window



- Opens in a new window

You Might Also Like

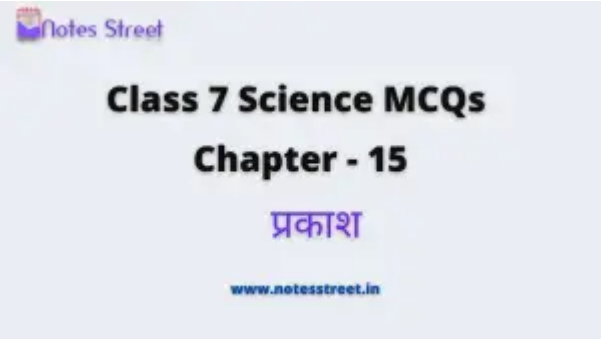

Class 7 Science MCQs Chapter – 15 प्रकाश

March 27, 2022

CBSE Class 11 Accountancy Notes

May 4, 2023

NCERT Class 11 Biology MCQs Chapter 17 Breathing and Exchange of Gases

February 5, 2023