- Post category:Class 7 MCQs

Here we are providing **NCERT Class 7 Science MCQs Chapter – 4 Heat**, Chapter Wise MCQs for board exam is very important for board exam preparation. This book explains all the concepts and topics in very simple language that the students can easily understand the complex subjects also. This NCERT Class 7 Science MCQs Chapter – 4 Heat, Chapter consist all important topic regarding chapter 4 NCERT Class 7 Science MCQs Chapter – 4 Heat. This book basically covers all the major and minor elements that together form a democratic government. Topics like power-sharing, federalism, democracy and diversity, political parties, consequences of democracy, challenges to democracy etc. have been discussed in the NCERT Class 7 Science MCQs Chapter – 4 Heat. The question papers in CBSE board exams are generally based on the latest NCERT books. Hence, students must follow the NCERT book to prepare effectively for their Class 7 Science exam. If you want color notes then **click here**

Download PDF

NCERT Class 7 Science MCQs Chapter – 4 Heat

1.Which of the following is a good conductor of heat?

(A) Iron

(B) Steel

(C) Aluminium

(D) All of these

Ans – (D)

2.Heat in liquid travels from the:

(A) bottom to top

(B) top to bottom

(C) right to left

(D) left to right

Ans – (A)

3.A device used to measure the temperature is

(A) transistor

(B) thermometer

(C) mercury

(D) none of these

Ans – (B)

4.Heat transferred into solids by:

(A) conduction

(B) convection

(C) radiation

(D) insulators

Ans – (A)

5.Which of the following thermometers has a kink?

(A) Laboratory thermometer

(B) Clinical thermometer

(C) Both (A) and (b)

(D) Digital thermometer

Ans – (B)

6.The substances which conduct heat easily are called:

(A) convection

(B) radiation

(C) conductors

(D) none of these

Ans – (C)

7.What is the range of the temperature reading of a clinical thermometer?

(A) 35°C – 42°C

(B) -10°C – 110°C

(C) 0°C – 100°C

(D) 32°C – 42°C

Ans – (A)

(adsbygoogle = window.adsbygoogle || []).push({});

8.In which process heat is transferred from hotter end to colder end is known as:

(A) conduction

(B) convection

(C) radiation

(D) none of these

Ans – (A)

9.Which of the following thermometer contains mercury?

(A) Clinical thermometer

(B) Laboratory thermometer

(C) Both (A) and (b)

(D) None of these

Ans – (C)

10.The substances which do not conduct heat easily are called:

(A) insulators

(B) convection

(C) conductors

(D) none of these

Ans – (A)

11.What is the range of the temperature reading of a laboratory thermometer?

(A) -10°C – 110°C

(B) 35°C – 42°C

(C) 0°C – 100°C

(D) -10°C – 100°C

Ans – (A)

12.In which process the liquid itself moves and carries the heat from one place to another ?

(A) radiation

(B) conductors

(C) convection

(D) none of these

Ans – (C)

13.The transfer of heat from hotter body to colder body is called

(A) conduction

(B) induction

(C) convection

(D) radiation

Ans – (A)

14.The correct method of reading a clinical thermometer is:

(A) holding the thermometer by bulb

(B) before use the mercury level should be below 39°C

(C) don't hold the thermometer by bulb

(D) none of these

Ans – (C)

15.The process of transferring of heat without any contact between the source of heat and the heated object is called

(A) conduction

(B) convection

(C) radiation

(D) induction

Ans – (C)

16.The normal temperature of human body is:

(A) 47°C

(B) 36°C

(C) 37°C

(D) 39°C

Ans – (C)

(adsbygoogle = window.adsbygoogle || []).push({});

17.Which currents are formed in all liquid on heating ?

(A) radiation current

(B) conduction current

(C) convection current

(D) none of these

Ans – (C)

18.The normal temperature of human body is

(A) 35°C

(B) 37°C

(C) 40°C

(D) 42°C

Ans – (B)

19.The hand which is over the flame feels hotter because hot air moves in:

(A) downward direction

(B) upward direction

(C) circular direction

(D) none of these

Ans – (B)

20.The materials which allow the heat to pass through them easily are called

(A) insulators

(B) conductors

(C) semiconductors

(D) poor conductors

Ans – (B)

21.Which thermometer is used to measure temperature of different things and places ?

(A) Laboratory thermometer

(B) Clinical thermometer

(C) Minimum and maximum thermometer

(D) None of these

Ans – (A)

22.Which of the following is an insulator?

(A) Wood

(B) Iron

(C) Copper

(D) Zinc

Ans – (A)

(adsbygoogle = window.adsbygoogle || []).push({});

23.The range of laboratory thermometer is:

(A) 70°C to 110°C

(B) -10°C to 110°C

(C) 20°C to 110°C

(D) None of these

Ans – (B)

24.The air from the sea is called

(A) sea breeze

(B) land breeze

(C) wind

(D) none of these

Ans – (A)

25.Which scale is used in clinical thermometer nowadays ?

(A) Celsius scale

(B) Fahrenheit scale

(C) Both (A) and (b)

(D) None of these

Ans – (A)

26.Which colour absorbs more heat?

(A) Black

(B) White

(C) Blue

(D) Red

Ans – (A)

27.Which scale was used in clinical thermometer during earlier times?

(A) Celsius scale

(B) Fahrenheit scale

(C) Both (A) and (b)

(D) None of these

Ans – (B)

28.What is the SI unit of temperature?

(A) Kelvin

(B) Celsius

(C) Fahrenheit

(D) None of these

Ans – (A)

29.Which thermometer records the highest and lowest temperature during a period of time ?

(A) Clinical thermometer

(B) Laboratory thermometer

(C) Minimum and maximum thermometer

(D) None of these

Ans – (C)

30.Which one is filled in the bulb of a thermometer?

(A) Mercury

(B) Lead

(C) Copper

(D) Silver

Ans – (A)

(adsbygoogle = window.adsbygoogle || []).push({});

31.A thermometer which do not use mercury is known as:

(A) clinical thermometer

(B) laboratory thermometer

(C) digital thermometer

(D) none of these

Ans – (C)

32.A marble tile would feel cold as compared to a wooden tile on a winter morning, because the marble tile

(A) is a better conductor of heat than the wooden tile.

(B) is polished while wooden tile is not polished.

(C) reflects more heat than wooden tile.

(D) is a poor conductor of heat than the wooden tile.

Ans – (A)

33.The scale used with the laboratory thermometer is Celsius scale, indicated by:

(A) °F

(B) °C

(C) K

(D) None of these

Ans – (C)

34.A beggar wrapped himself with a few layers of newspaper on a cold winter night. This helped him to keep himself warm because

(A) friction between the layers of newspaper produces heat.

(B) air trapped between the layers of newspaper is a bad conductor of heat.

(C) newspaper is a conductor of heat.

(D) newspaper is at a higher temperature than the temperature of the surrounding.

Ans – (B)

35.One litre of water at 30°C is mixed with one litre of water at 50°C. The temperature of mixture will be:

(A) 80°C

(B) More than 50°C but less than 80°C

(C) 20°C

(D) Between 30°C and 50°C

Ans – (D)

36.Sonu and Ria measured their body temperature Sonu found his to be 98.6°F and Ria recorded 37°C.

Which of the following statement is true?

(A) Sonu has a higher body temperature than Ria.

(B) Sonu has a lower body temperature than Ria.

(C) Both have normal body temperature.

(D) Both are suffering from fever.

Ans – (C)

37.An iron ball at 40°C is dropped in a mug containing water at 40°C. The heat will:

(A) flow from iron ball to water

(B) not flow from iron ball to water or from water to iron ball

(C) flow from water to iron ball

(D) increase the temperature of both

Ans – (B)

36.Sonu and Ria measured their body temperature Sonu found his to be 98.6°F and Ria recorded 37°C.

Which of the following statement is true?

(A) Sonu has a higher body temperature than Ria.

(B) Sonu has a lower body temperature than Ria.

(C) Both have normal body temperature.

(D) Both are suffering from fever.

Ans – (C)

39.A wooden spoon is dipped in a cup of ice-cream its other end:

(A) becomes cold by the process of convection

(B) becomes cold by the process of conduction

(C) becomes cold by the process of radiation

(D) does not become cold

Ans – (D)

(adsbygoogle = window.adsbygoogle || []).push({});

40.Land breeze blows from

(A) lower surface to upper surface

(B) sea to land

(C) upper surface to lower surface

(D) land to sea

Ans – (D)

41.Which one of the following is a reliable measure?

(A) Hotness

(B) Coldness

(C) Temperature

(D) None of these

Ans – (C)

42.Liquid used in thermometers is

(A) alcohol

(B) mercury

(C) water

(D) oil

Ans – (B)

43.Name the device which is used to measure the hotness or coldness of an object.

(A) Picometer

(B) Barometer

(C) Manometer

(D) Thermometer

Ans – (D)

44.Liquids and gases transfer the heat by

(A) radiation

(B) conduction

(C) convection

(D) all of these

Ans – (C)

45.Which one is filled in the bulb of a thermometer?

(A) Mercury

(B) Lead

(C) Copper

(D) Silver

Ans – (A)

46.Metals are conductors of heat.

(A) average

(B) poor

(C) good

(D) some are poor conductors

Ans – (C)

47.Heat always flows

(A) from a colder object to a hotter object

(B) from a hotter object to a colder object

(C) in both the directions

(D) heat never flows from one object to other

Ans – (B)

48.Woollen clothes

(A) keep us cool

(B) decrease the body temperature

(C) increase the body temperature

(D) keep us warm

Ans – (D)

(adsbygoogle = window.adsbygoogle || []).push({});

49.Heat from the sun reaches to us by

(A) radiation

(B) conduction

(C) convection

(D) all of these

Ans – (A)

50.Degree of hotness or coldness is called

(A) temperature

(B) power

(C) heat

(D) energy

Ans – (A)

51.A beggar wrapped himself with a few layers of newspaper on a cold winter night. This helped him to keep himself warm because:

(A) friction between the layers of newspaper produces heat.

(B) air trapped between the layers of newspaper is a bad conductor of heat.

(C) newspaper is a conductor of heat.

(D) newspaper is at a higher temperature than the temperature of the surroundiong.

Ans – (B)

52.Sunlight reaches the earth's surface through

(A) convection

(B) radiation

(C) conduction

(D) radio waves

Ans – (B)

53.A marble tile would feel cold as compared to a wooden tile on a winter morning, because the marble tile:

(A) is a better conductor of heat than the wooden tile.

(B) is polished while wooden tile is not polished.

(C) reflects more heat than wooden tile.

(D) is a poor conductor of heat than the wooden tile.

Ans – (A)

54.Heat is

(A) a form of energy

(B) a type of matter

(C) sometimes energy and sometimes matter

(D) none of these

Ans – (A)

55.Paheli and Boojho measured their body temperature. Paheli found her's to be 98.6°F and Boojho recorded 37°C. Which of the following statement is true?

(A) Paheli has a higher body temperature than Boojho.

(B) Paheli has a lower body temperature than Boojho.

(C) Both have normal body temperature.

(D) Both are suffering from fever.

Ans – (C)

56.The normal temperature of human body is

(A) 37 K

(B) 37°F

(C) 37°C

(D) All of these

Ans – (C)

(adsbygoogle = window.adsbygoogle || []).push({});

57. Cooking Utensils Are Made Of Metals Because They Are

(A) Durable

(B) Malleable

(C) Good conductors of heat

(D) Do not break on heating

Ans – (C)

58.In solids, heat transfer takes place primarily due to

(A) conduction

(B) convection

(C) radiation

(D) none of these

Ans – (A)

59.Which of the following is a good conductor of heat?

(A) Iron

(B) Steel

(C) Aluminium

(D) All of these

Ans – (D)

Please Share This Share this content

- Opens in a new window



- Opens in a new window

- Opens in a new window

- Opens in a new window

- Opens in a new window

- Opens in a new window

- Opens in a new window

- Opens in a new window

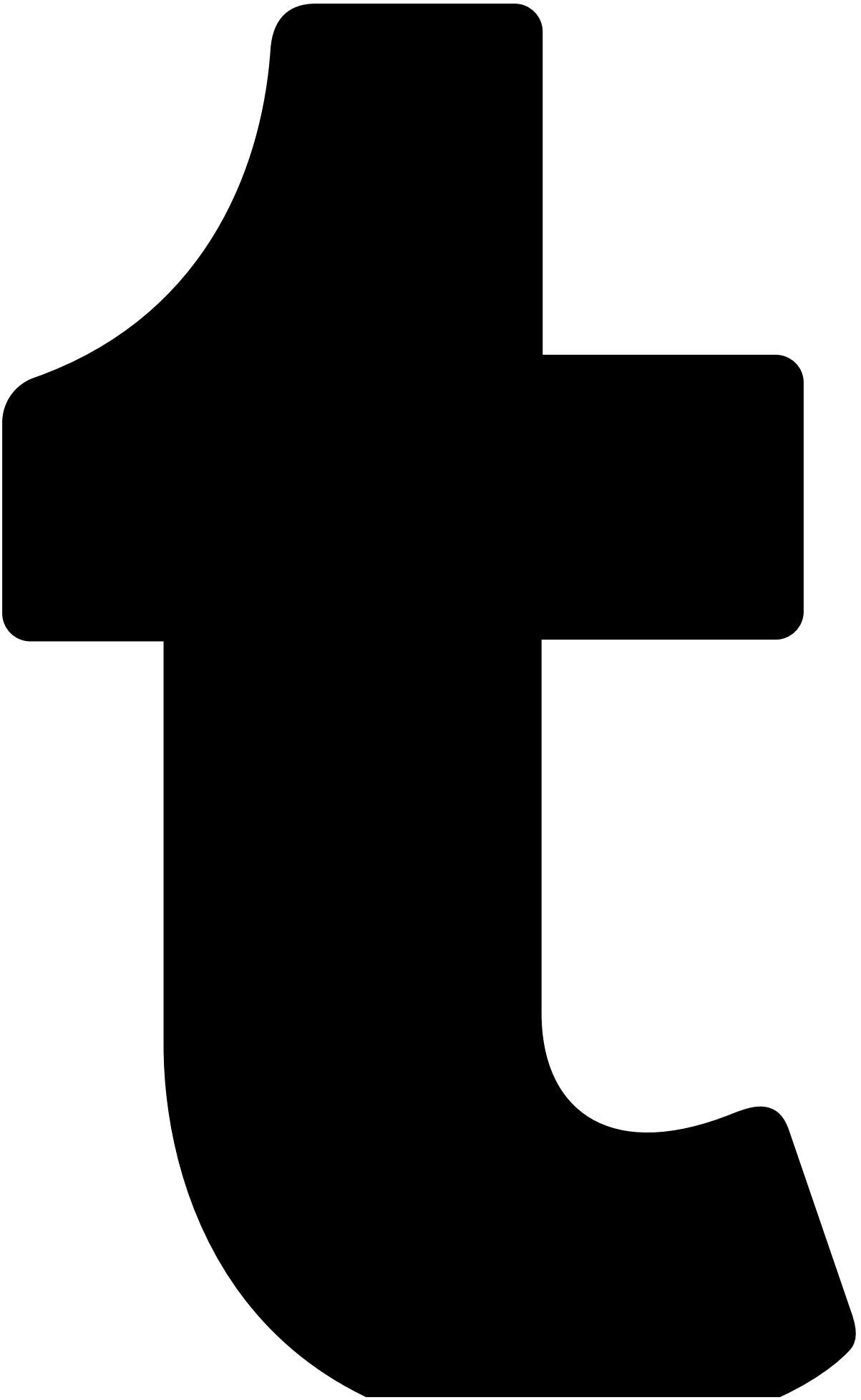

- Opens in a new window



- Opens in a new window

You Might Also Like

Class 7 Social Science Our Past MCQs Chapter – 5 Rulers and Buildings

April 2, 2023

NCERT Class 7 Science MCQs Chapter – 15 Light

July 14, 2022

Class 7 Math Important MCQs Chapter – 06 The Triangle and its Properties

August 24, 2023