Skip to content

- Post category:Class 7 MCQs

Here we are providing **NCERT Class 7 Science MCQs Chapter –** 11 Transportation in Animals and Plants, Chapter Wise MCQs for board exam is very important for board exam preparation. This book explains all the concepts and topics in very simple language that the students can easily understand the complex subjects also. This NCERT Class 7 Science MCQs Chapter – 11 Transportation in Animals and Plants, Chapter consist all important topic regarding chapter 11 NCERT Class 7 Science MCQs Chapter – 11 Transportation in Animals and Plants. This book basically covers all the major and minor elements that together form a democratic government. Topics like power-sharing, federalism, democracy and diversity, political parties, consequences of democracy, challenges to democracy etc. have been discussed in the NCERT Class 7 Science MCQs Chapter – 11 Transportation in Animals and Plants. The question papers in CBSE board exams are generally based on the latest NCERT books. Hence, students must follow the NCERT book to prepare effectively for their Class 7 Science exam. If you want color notes then **click here**

Download PDF

1.The pumping organ of our circulatory system is

(A) heart

(B) artery

(C) vein

(D) all of these

Ans – (A)

2.Which of the following is the main circulatory fluid in our body ?

(A) Plasma

(B) Lymph

(C) Blood

(D) None of these

Ans – (C)

3.Water absorption through roots can be increased by keeping the plants:

(A) in the shade

(B) in dim light

(C) under the fan

(D) covered with a polythene bag

Ans – (C)

4.What is the state of the blood?

(A) Solid

(B) Fluid

(C) Gas

(D) None of these

Ans – (B)

5.Which one of the following contains haemoglobin?

(A) RBC

(B) WBC

(C) Platelets

(D) None of these

Ans – (A)

6.The process by which a plant loses water through the stomata is called:

(A) excretion

(B) transpiration

(C) respiration

(D) sweating

Ans – (B)

7.What is the function of WBCs?

(A) Transport of oxygen

(B) Fight against germs

(C) Involved in blood clotting

(D) All of these

Ans – (B)

(adsbygoogle = window.adsbygoogle || []).push({});

8.They are pipe-like, consisting of a group of specialised cells. They transport substances and form a two¬way traffic in plants. Which of the following terms qualify for the features mentioned above?

(A) Xylem tissue

(B) Vascular tissue

(C) Root hairs

(D) Phloem tissue

Ans – (B)

9.Blood platelets help in

(A) formation of urine

(B) excretion of urine

(C) sweating

(D) blood clotting

Ans – (D)

10.Urea is a waste produced in the process of the breaking down of:

(A) proteins

(B) carbohydrates

(C) fats

(D) sugar

Ans – (A)

11.The muscular tube through which stored urine is passed out of the body is called:

(A) kidney

(B) ureter

(C) urethra

(D) urinary bladder

Ans – (C)

12.The fluid part of the blood is known as

(A) membrane

(B) plasma

(C) RBC

(D) WBC

Ans – (B)

13.They are pipe-like, consisting of a group of specialised cells. They transport substances and form a two-way traffic in plants. Which of the following terms qualify for the features mentioned above?

(A) Xylem tissue

(B) Vascular tissue

(C) Root hairs

(D) Phloem tissue

Ans – (D)

14.The thinnest blood vessels in the human body are:

(A) arteries

(B) capilharies

(C) veins

(D) any of these

Ans – (B)

15.In which of the following parts of human body are sweat glands absent?

(A) Scalp

(B) Armpits

(C) Lips

(D) Palms

Ans – (C)

16.The red pigment present in the RBC of the blood is

(A) haemoglobin

(B) WBC

(C) pulse

(D) none of these

Ans – (A)

(adsbygoogle = window.adsbygoogle || []).push({});

17.In a tall tree, which force is responsible for pulling water and minerals from the soil?

(A) Gravitational force

(B) Transportation force

(C) Suction force

(D) Conduction force

Ans – (C)

18.Blood platelets are responsible for:

(A) haemoglobin

(B) red blood cells

(C) white blood cells

(D) blood clotting

Ans – (D)

19.Aquatic animals like fish excrete their wastes in gaseous form as

(A) Oxygen

(B) Hydrogen

(C) Ammonia

(D) Nitrogen

Ans – (C)

20. Which of the following mechanisms is not used by human beings for excretion of waste materials from their bodies?

(A) Exhalation

(B) Perspiration

(C) Defecation

(D) Transfusion

Ans – (D)

21.Which blood cells are a significant part of the immune system of the body?

(A) RBC

(B) WBC

(C) Platelets

(D) All of these

Ans – (B)

22.Which of the following is the main circulatory fluid in our body ?

(A) Plasma

(B) Lymph

(C) Blood

(D) None of these

Ans – (C)

23.During transpiration water is lost from the plant in the form of:

(A) water vapour

(B) liquid

(C) hydrogen and oxygen gas

(D) steam

Ans – (A)

24.The cells in the blood which help in clotting are.

(A) Haemoglobins

(B) Platelets

(C) Red blood cells

(D) White blood cells

Ans – (B)

(adsbygoogle = window.adsbygoogle || []).push({});

25.Blood cells that protect the body from disease are:

(A) RBCs

(B) WBCs

(C) blood platelets

(D) all of these

Ans – (B)

26.The part of human body which lacks sweat gland is

(A) scalp

(B) armpits

(C) lips

(D) palms

Ans – (C)

27.The device used to hear the heart beat is called a:

(A) thermometer

(B) stethoscope

(C) sphygmomanometer

(D) microscope

Ans – (B)

28.Which blood vessel carries oxygen-rich blood?

(A) Arteries

(B) Veins

(C) Both (A) and (b)

(D) None of these

Ans – (A)

29.In the human urinary system, which of these in your opinion is the most important organ?

(A) kidney

(B) ureters

(C) urinary bladder

(D) urethra

Ans – (A)

30.The number of heart beats per minute is called

(A) pulse rate

(B) throbbing

(C) beating

(D) none of these

Ans – (A)

31.Which of the following are the tiny filtering units of the kidney?

(A) ureters

(B) bladder

(C) nephrons

(D) urethra

Ans – (C)

32.What joins up to form veins which empty into the heart?

(A) Arteries

(B) Capillaries

(C) Red blood cells

(D) White blood cells

Ans – (B)

(adsbygoogle = window.adsbygoogle || []).push({});

33.The average of adult blood pressure is:

(A) 110/90

(B) 110/80

(C) 120/110

(D) 120/80

Ans – (D)

34.The heart is located in the

(A) chest cavity

(B) stomach

(C) lungs

(D) all of these

Ans – (A)

35.Water is absorbed by the roots from the soil by a process is:

(A) translocation

(B) osomosis

(C) transpiration

(D) none of these

Ans – (B)

36.How many chambers does the human heart have?

(A) Three

(B) Four

(C) Five

(D) Two

Ans – (B)

37.The fluid part of the blood is:

(A) cells

(B) veins

(C) plasma

(D) tissue

Ans – (C)

38.Name an instrumental device used to amplify the sound of heart.

(A) Stethoscope

(B) UV machine

(C) Both (A) and (b)

(D) Ultrasound machine

Ans – (A)

39.A liquid which carries disgerted food to various parts of our body is:

(A) pulse rate

(B) RBCs

(C) WBCs

(D) blood

Ans – (D)

40.The absorption of nutrients and exchange of respiratory gases between blood and tissues take place in

(A) veins

(B) arteries

(C) heart

(D) capillaries

Ans – (D)

(adsbygoogle = window.adsbygoogle || []).push({});

41.Transportation of materials in human body is conducted by:

(A) digestive system

(B) excretory system

(C) circulatory system

(D) none of these

Ans – (C)

42.All organisms need food, water and ……. for survival.

(A) carbon dioxide

(B) oxygen

(C) nitrogen

(D) argon

Ans – (B)

43.'The vascular tissue for that transports the food synthesised by the leaves to all parts of the plant is:

(A) Phloem

(B) xylem

(C) stomata

(D) root hairs

Ans – (A)

44.Blood carries from the cells of the body to the heart.

(A) argon

(B) neon

(C) carbon dioxide

(D) nitrogen

Ans – (C)

45.Small pores in leaves of plants are called:

(A) stomata

(B) xylem

(C) Phloem

(D) root hairs

Ans – (A)

46.The fluid part of the blood is called

(A) plasma

(B) RBC

(C) WBC

(D) blood platelets

Ans – (A)

47.Any two substances that are transported by blood:

(A) water, air

(B) water and oxygen

(C) oxygen, food

(D) none of these

Ans – (C)

48.Red pigment in Red Blood Cells is

(A) haemoglobin

(B) plasma

(C) arteries

(D) veins

Ans – (A)

49.Right side of heart has blood rich in:

(A) carbon dioxide

(B) oxygen

(C) haemoglobin

(D) can't say

Ans – (A)

(adsbygoogle = window.adsbygoogle || []).push({});

50.The cells in the blood which fight against the germs entering the body are

(A) RBCs

(B) WBCs

(C) platelets

(D) haemoglobin

Ans – (B)

51.Left side of heart has blood rich in:

(A) carbon dioxide

(B) oxygen

(C) haemoglobin

(D) none of these

Ans – (B)

52.The blood vessels which carry oxygen – rich blood from the heart to all parts of the body are called

(A) arteries

(B) veins

(C) RBCs

(D) WBCs

Ans – (A)

53.Sea fishes excrete salt through their:

(A) lungs

(B) wings

(C) gills

(D) stomata

Ans – (C)

54.The blood vessels which carry carbon dioxide-rich blood from all parts of the body back to the heart are called

(A) arteries

(B) veins

(C) RBCs

(D) platelets

Ans – (B)

55.Insects excrete uric acid in form of:

(A) liquid

(B) gases

(C) both a and b

(D) solids

Ans – (D)

56.The device used by the doctor to check up the heart beat is called

(A) anemometer

(B) thermometer

(C) barometer

(D) stethoscope

Ans – (D)

57.How much urine is passed in 24 hours by adult human being?

(A) 1-1.81 of urine

(B) 1-1.41 of urine

(C) 1-1.61 of urine

(D) 1-1.71 of urine

Ans – (A)

(adsbygoogle = window.adsbygoogle || []).push({});

58.The processes of removal of waste materials from the body is called

(A) digestion

(B) excretion

(C) respiration

(D) inhalation

Ans – (B)

59.An average person has a pulse rate:

(A) less than 75 per minute

(B) more than 75 per minute

(C) between 70-75 per minute

(D) none of these

Ans – (C)

60.Which of the following is an excretory organ?

(A) Kidney

(B) Heart

(C) Lung

(D) Blood

Ans – (A)

61.The flow of blood is fastest in:

(A) arteries

(B) capillaries

(C) veins

(D) none of these

Ans – (A)

62.Which of the following is an effect of sweat on the human body?

(A) It causes cooling.

(B) It causes heating.

(C) It causes freezing.

(D) It causes melting.

Ans – (A)

63.The wall of which of the following is thick and elastic:

(A) arteries

(B) veins

(C) capillaries

(D) none of these

Ans – (A)

64.Aquatic animals excrete cell waste mostly as

(A) ammonia

(B) oxygen

(C) carbon dioxide

(D) nitrogen

Ans – (A)

Please Share This Share this content

- Opens in a new window



- Opens in a new window

- Opens in a new window

- Opens in a new window

- Opens in a new window

- Opens in a new window

- Opens in a new window

- Opens in a new window

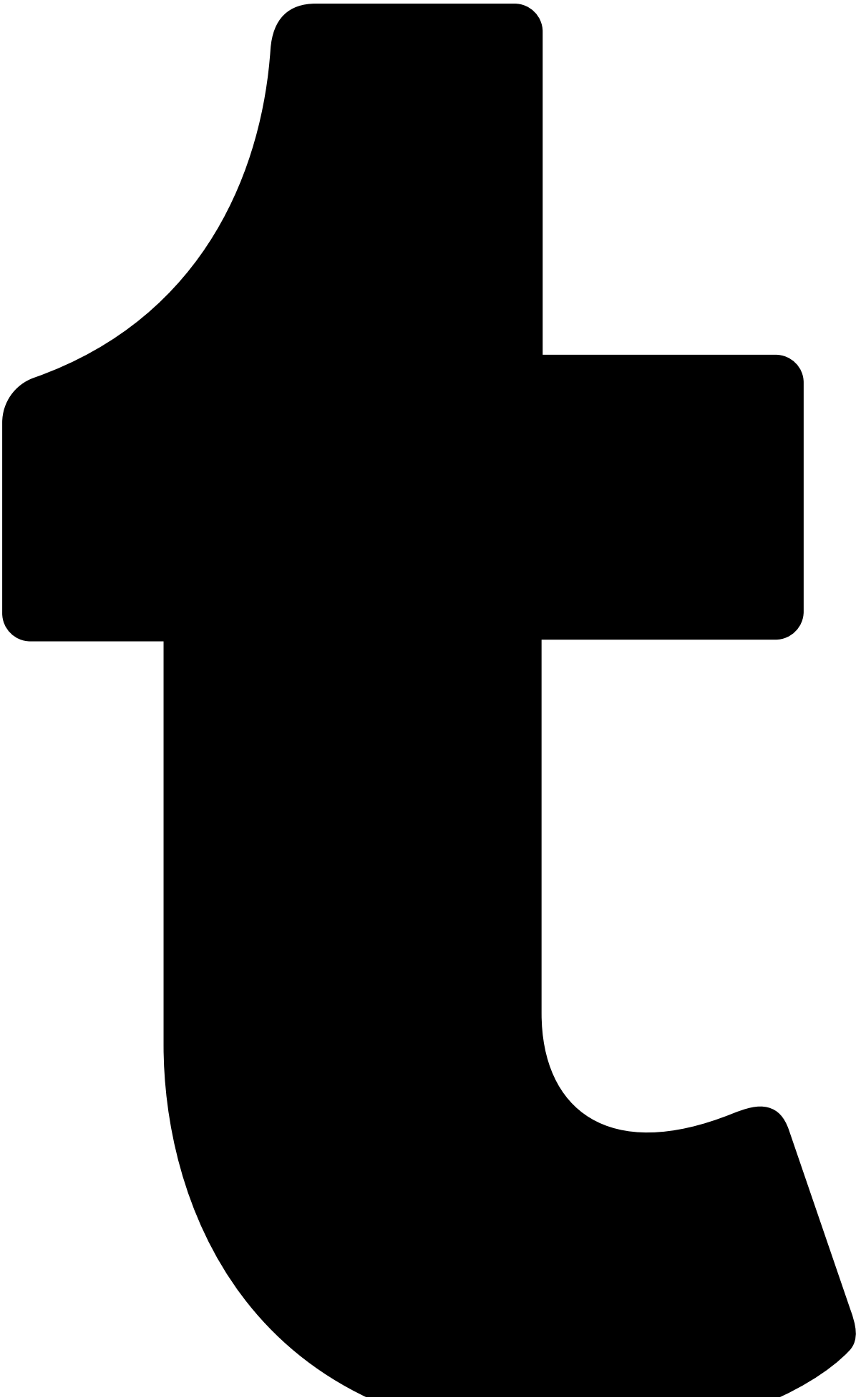

- Opens in a new window



- Opens in a new window

You Might Also Like

Class 7 Math Important MCQs Chapter – 06 The Triangle and its Properties

August 24, 2023

NCERT Class 7 English

June 23, 2022

NCERT Class 7 Science MCQs Chapter – 6 Physical and Chemical Changes

July 5, 2022