Skip to content

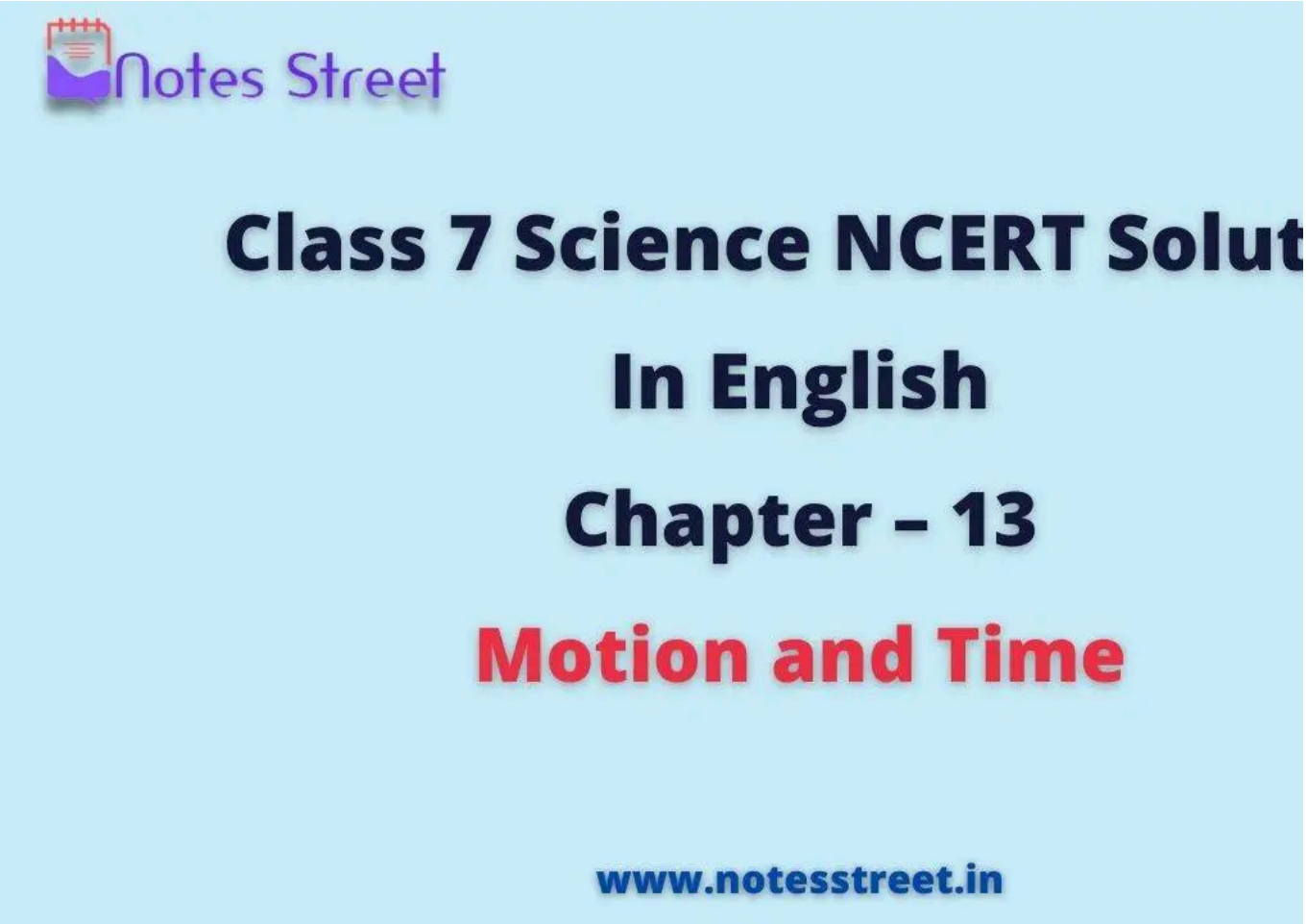

Class 7 Science NCERT Solutions in English Chapter – 13 Motion and Time

- Post category:Class 7 Science NCERT Solution In English

Here we are providing **Class 7 Science NCERT Solutions in English** Chapter – 13 Motion and Time include all questions presented in the NCERT Science Class 7 books. Candidates can enlist the help of the NCERT Science Class 7 solutions in English on the next page and gain a deeper understanding of the concepts. NCERT Class 7 Science NCERT Solutions in English Chapter – 13 Motion and Time Class 7 Science NCERT Solutions in English Chapter – 13 Motion and Time is designed by our team of subject matter experts to help students prepare for exams. English students can view the PDF of the NCERT Class 7 Science Solutions on the page below. From the NCERT Science Book English Questions and Answers on this page, students will learn how to correctly solve NCERT problems.

Remember that the NCERT Class 7 Science Book Solution is the best resource for a good study of the 18 chapters. Use the NCERT Class 7 Science Book Solution as a reference and keep practicing with the answers to questions and exercises until you improve your answers to all chapters of your Class 7 Science Program. Class 7 Science NCERT Solutions in English Chapter – 13 Motion and Time will help you solve all NCERT Class 7 Science questions chapter 13 smoothly. if you want more notes for various subject then **click here**

Class 7 Science NCERT Solutions in English Chapter – 13 Motion and Time

---

Q 1:

Classify the following as motion along a straight line, circular or oscillatory motion:

(i) Motion of your hands while running.

(ii) Motion of a horse pulling a cart on a straight road.

(iii) Motion of a child in a merry-go-round.

(iv) Motion of a child on a see-saw.

(v) Motion of the hammer of an electric bell.

(vi) Motion of a train on a straight bridge.

Ans 1:

(i) Motion of your hands while running – Oscillatory motion.

(ii) Motion of a horse pulling a cart on a straight road – Straight line motion.

(iii) Motion of a child in a merry-go-round – Circular motion.

(iv) Motion of a child on a see-saw – Oscillatory motion.

(v) Motion of the hammer of an electric bell – Oscillatory motion.

(vi) Motion of a train on a straight bridge – Straight line motion.

Q 2:

Which of the following are not correct?

(i) The basic unit of time is second.

(ii) Every object moves with a constant speed.

(iii) Distances between two cities are measured in kilometers.

(iv) The time period of a given pendulum is not constant.

(v) The speed of a train is expressed in m/h.

Ans 2:

(i) The basic unit of time is second – Correct

(ii) Every object moves with a constant speed – Not correct

(iii) Distances between two cities are measured in kilometers – Correct

(iv) The time period of a given pendulum is not constant – Not correct

(v) The speed of a train is expressed in m/h – Not correct

Q 3:

A simple pendulum takes 32 s to complete 20 oscillations. What is the time period of the pendulum?

Ans 3:

The time taken to complete one oscillation is known as time period of the pendulum.

$$Time\ period = \frac{Total\ time\ taken}{Number\ of\ oscillations} = \frac{32}{20} = 1.6\ seconds$$

Q 4:

The distance between two stations is 240 km. A train takes 4 hours to cover this distance.

Calculate the speed of the train.

Ans 4:

Q 5:

The odometer of a car reads 57321.0 km when the clock shows the time 08:30 AM. What

is the distance moved by the car, if at 08:50 AM, the odometer reading has changed to 57336.0 km? Calculate the speed of the car in km/min during this time. Express the speed in km/h also.

Ans 5:

Distance covered by car = 57336.0 km – 57321.0 km = 15.0 km

Time taken between 08:30 AM to 08:50 AM = 20 minutes = 20/60 hour = 1/3 hour

So, speed in km/min

Q 6:

Salma takes 15 minutes from her house to reach her school on a bicycle. If the bicycle has a speed of 2 m/s, calculate the distance between her house and the school.

Ans 6:

Speed = 2 m/s

Time taken = 15 minutes = 15 × 60 seconds = 900 seconds

Now, distance = speed × time = 2 × 900 = 1800 m = 1.8 km

Q 7:

Show the shape of the distance-time graph for the motion in the following cases:

(i) A car moving with a constant speed.

(ii) A car parked on a side road.

Ans 7:

Q 9:

The basic unit of speed is:

(i) km/min (ii) m/min

(iii) km/h (iv) m/s

Ans 9:

(iv) m/s

Q 10:

A car moves with a speed of 40 km/h for 15 minutes and then with a speed of 60 km/h for the next 15 minutes. The total distance covered by the car is:

(i) 100 km (ii) 25 km

(iii) 15 km (iv) 10 km

Ans 10:

(ii) 25 km

Solution:

Case I:- Speed = 40 km/h

Time = 15 min = 15/60 hour

Distance = Speed × Time = 40 × 15/60 = 10 km

Case II:- Speed = 60 km/h

Time = 15 min = 15/60 hour

Distance = Speed × Time = 60 × 15/60 = 15 km

Total distance = 10 km + 15 km = 25 km

Q 11:

Suppose the two photographs, shown in Fig. 13.1 and Fig. 13.2, had been taken at an interval of 10 seconds. If a distance of 100 metres is shown by 1 cm in these photographs, calculate the speed of the blue car.

Ans 11:

From the figures 13.1 and 13.2, we conclude that the distance covered by blue car is 2 cm.

So, the distance covered = 2 × 100 m = 200 m

Time taken = 10 seconds

Q 12:

Fig. 13.15 shows the distance-time graph for the motion of two vehicles A and B. Which one of them is moving faster?

Ans 12:

Vehicle A is traveling longer distance in lesser time as compared to Vehicle B. So, vehicle A is moving faster.

Q 13:

Which of the following distance-time graphs shows a truck moving with speed which is not constant?

Ans 13:

(iii) Graph is not a straight line, so it shows a truck moving with speed which is not constant.

If you want chapter wise NCERT Solutions for class 7 Science in English then Link given below.

CHAPTER NO.	CHAPTER NAME
1	Nutrition in Plants
2	Nutrition in Animal
3	fiber to Fabric
4	Heat
5	Acids, bases and Salts
6	physical and Chemical changes
7	Weather, Climate and Adaptations of Animals to Climate
8	Winds, Storms and Cyclones
9	Soil
10	Respiration in Organisms
11	Transportation in Animals and Plants
12	Reproduction in Plants
13	Motion and Time
14	Electric Current and its Effects
15	Light
16	Water: A Precious Resource
17	Forests : Our Lifeline
18	Waste water Story

Please Share This Share this content

- Opens in a new window



- Opens in a new window

- Opens in a new window

- Opens in a new window

- Opens in a new window

- Opens in a new window

- Opens in a new window

- Opens in a new window

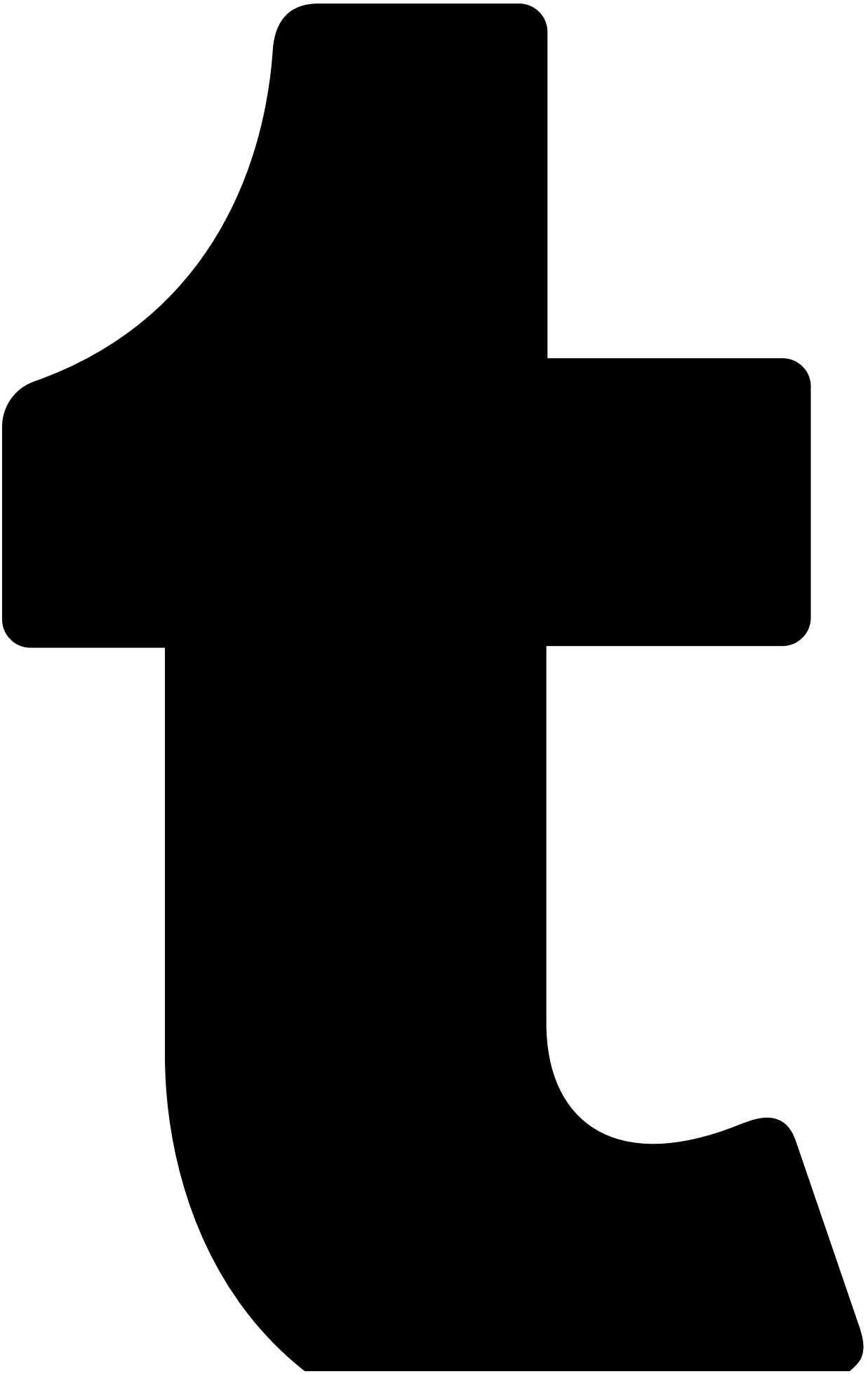

- Opens in a new window



- Opens in a new window

You Might Also Like

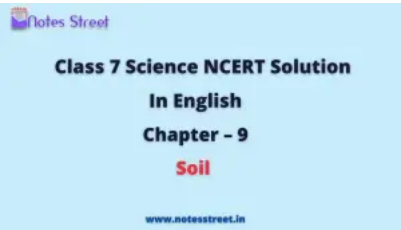

Class 7 Science NCERT Solutions in English Chapter – 9 Soil

May 1, 2022

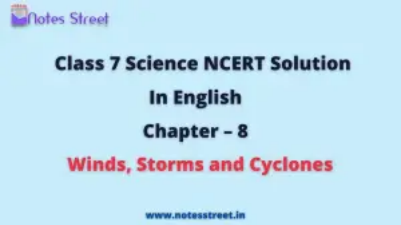

[Class 7 Science NCERT Solutions in English Chapter – 8 Winds, Storms and Cyclones]

May 1, 2022

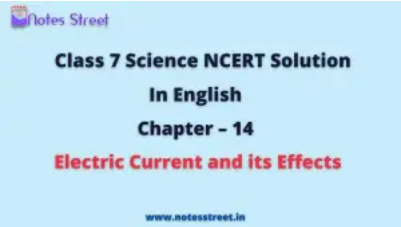

[Class 7 Science NCERT Solutions in English Chapter – 14 Electric Current and its Effects]

May 2, 2022